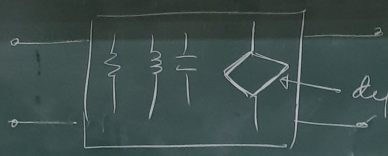
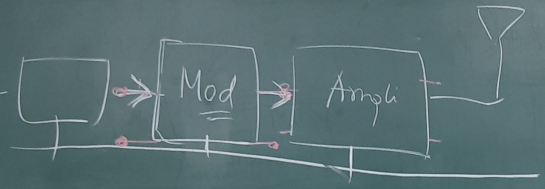
PS2




No indep sources
(Active)

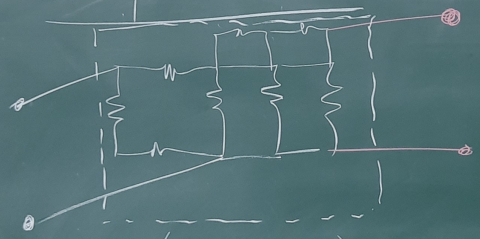
Goal: Come up with relations between i/p & o/p volt & currents
→ linear / matrix



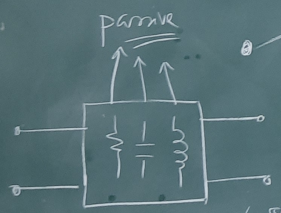

Linear n/w

PS1

Two port network



Reciprocity theorem
(true really)



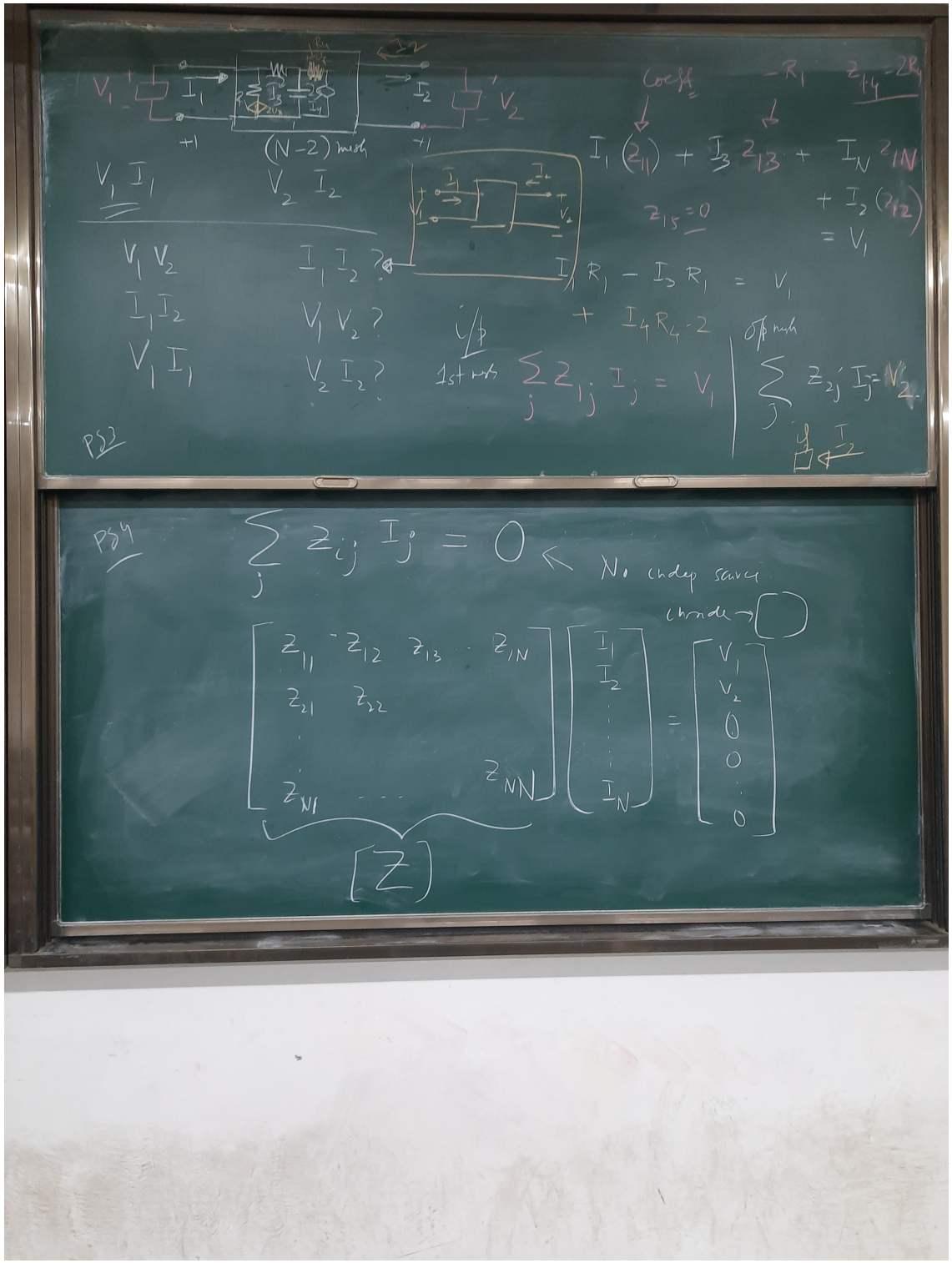

(all passive)
R/L/C

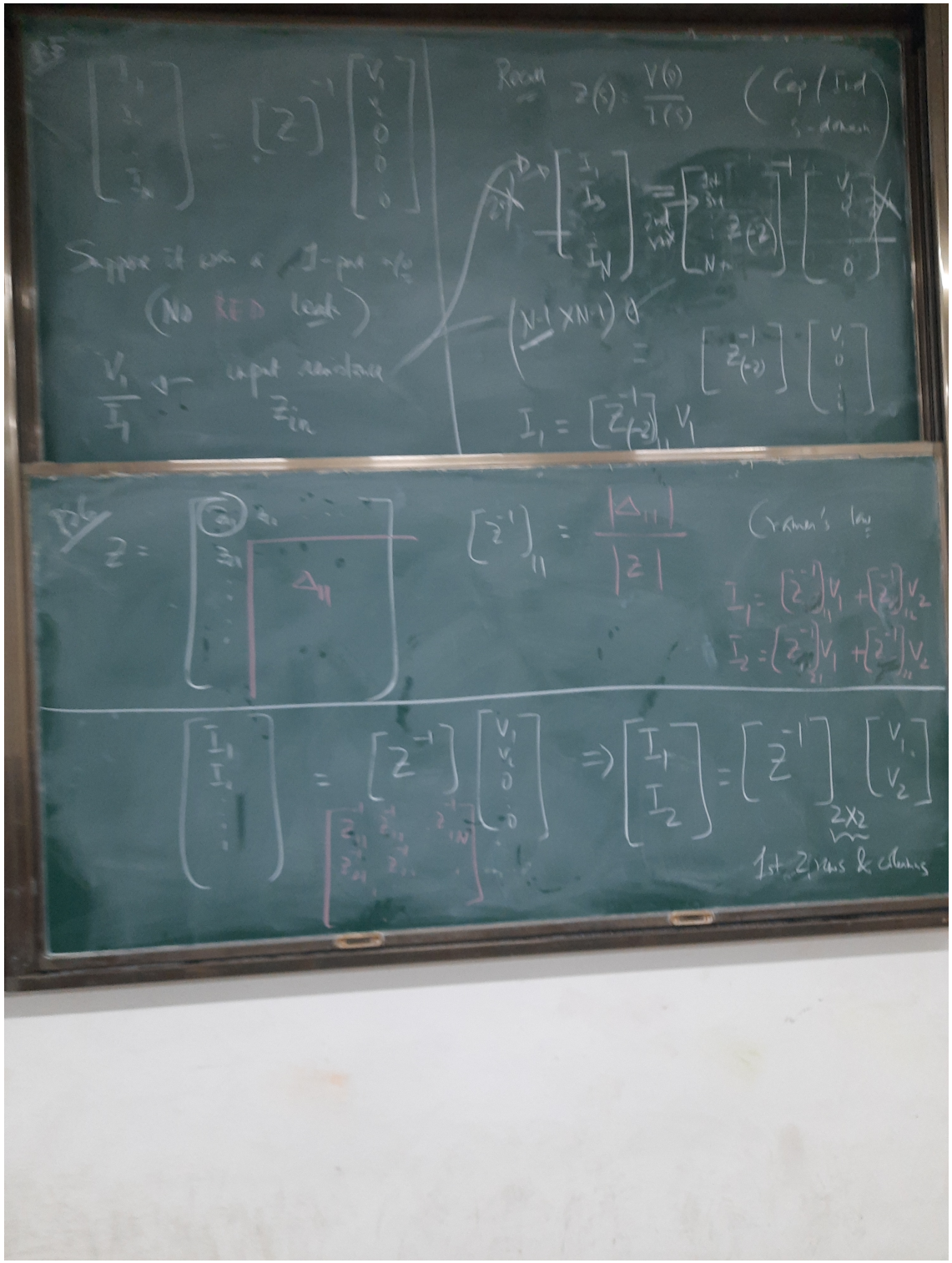
A special 2-port n/w

i/p

o/p

passive 2-port



V1
I1
I2
V2
+1
(N-2) mesh
+1
V1 I1
V2 I2
V1 V2
I1 I2 ?
I1 I2
V1 V2 ?
V1 I1
V2 I2 ?
P32
Coeff =
-R1
Z14 = -R4
I1 (Z11) + I3 Z13 + IN Z1N
+ I2 (Z12)
Z15 = 0
= V1
I1 R1 - I3 R1 = V1
+ I4 R4 · 2
i/p
1st mesh
Σj Z1j Ij = V1
Op mesh
Σj Z2j Ij = V2
P34
Σj Zij Ij = 0
No indep source
choose
Z11 Z12 Z13 ... Z1N
Z21 Z22
ZN1 ... ZNN
I1 I2 ... IN
V1 V2 0 0 ... 0
[Z]


Recall
Cap (Ind
s-domain
Suppose it was a J-port n/w
(No RED leads)
input resistance
Zin
Cramer's law
1st 2 rows & columns

PS 7

$I_1 = y_{11} V_1 + y_{12} V_2$

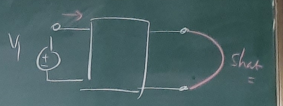
$I_2 = y_{21} V_1 + y_{22} V_2$



Suppose $V_2 = 0$

$\Rightarrow y_{11} = \left.\frac{I_1}{V_1}\right|_{V_2=0}$ — i/p admittance

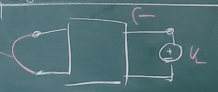
(o/p port) Short circuit input admittance




— Short circuit

$y_{22} = \left.\frac{I_2}{V_2}\right|_{V_1=0}$

Short circuit o/p admittance




$y_{12}$ / $y_{21}$ are transfer admittance

$y_{12} = \left.\frac{I_1}{V_2}\right|_{V_1=0}$ $\quad y_{21} = \left.\frac{I_2}{V_1}\right|_{V_2=0}$

